FOLOPENSI ZONAL EXAMINATION BOARD

2026 PRIMARY SCHOOL LEAVING CERTIFICATE MOCK EXAMINATION

PRIMARY SCIENCE

(100 Marks)

Friday, 13 March

Time allowed: 2 hrs
8:00 - 10:00 am

Candidate Name: _____
(Surname First)
School Name: _____

Instructions:

1. **This paper contains 11 printed pages. Please check**

2. This paper has **two** sections **A** and **B**. section **A** consists of **40** multiple choice questions carrying 1 mark each. Encircle a letter of your choice representing the right answer to each question. Section **B** has **12** structured questions. Write your answers to this section on the question paper in the spaces provided. The maximum number of marks for each answer is indicated against the question

3. Answer **all** questions.

4. In the table provided on this page **tick** against the question number you have answered.

5. **IMPORTANT**
   - Please make sure that you have written your **name** and **examination number** on the question paper in the spaces provided.
   - Please hand in your worked question paper to the invigilator when time is called to stop writing.

Question number	Tick questions 41-52 if answered	Do not write in these Columns	
1-20			
21-40			
41			
42			
43			
44			
45			
46			
47			
48			
49			
50			
51			
52			

Turn Over

SECTION A (40 MARKS)

AGRICULTURE

1. Gathering of crops after maturity is called _____.
   A. Weeding
   B. Storage
   C. Disease and pest control
   D. Harvesting

2. Why should washing of chicken eggs be avoided?
   A. To prevent them from bad smell
   B. To prevent them from losing weight.
   C. To prevent removing the protective coat on the outside surface.
   D. To prevent them from losing value.

3. Resources that are used to produce crops and livestock are known as ____.
   A. Factors of production
   B. Marketing functions
   C. Branches of agriculture
   D. Natural resources

4. How can problems of marketing perishable products be solved?
   1. By processing the products
   2. By growing them near the market
   3. By not over producing them
   4. By reducing their prices on the market
      A. 1 and 4
      B. 2 and 3
      C. 1 and 2
      D. 3 and 4

5. Which of the following trees is recommended in agroforestry.
   A. Gmelina
   B. M'bawa
   C. Leucaena
   D. Msambamfumu

6. Which of the following is a method of treating seeds for sowing.
   A. Rubbing seeds with sand paper
   B. Washing seeds with soap
   C. Boiling seeds in paraffin
   D. Cutting seeds into small pieces

7. The following flowers are useful in the control of certain diseases, **except**
   A. Perinkle
   B. Roses
   C. Aloe Vera
   D. Dahlia

8. Why is wood ash included when making compost manure?
   A. To prevent rotting
   B. To improve acid
   C. To reduce micro-organisms
   D. To reduce acid

The figure below is a diagram showing a pest of cassava. Use it to answer question 9 and 10

9. Identify the pest above.
   A. Wild pig
   B. Hare
   C. Porcupine
   D. Monkey

Continued/……

10. Which of the following is a way of controlling the pest?
A. Trapping
B. Early planting
C. Planting healthy cuttings
D. Practicing crop rotation

11. Which of the following processes and stages of water cycle refers to "rainfall"?
A. Condensation
B. Transpiration
C. Precipitation
D. Surface run-off

12. The following fruits are suckers as planting materials **except**
A. Pawpaw's
B. Bananas
C. Plantains
D. Pineapples

13. Which of the following parts of the sprayer delivers the spray?
A. Nozzle
B. Plain pump barrel
C. Nozzle cup
D. Lance

14. How are trees in the agroforestry plot harvested?
A. Direct stripping
B. Pruning
C. Stoking
D. Uprooting

15. Which of the following is a sign that maize is fully dry ready for harvesting.
A. The cobs bend side wards
B. The stalk falls down
C. The stalk becomes black
D. The cobs droop

16. When is the actual price of a commodity be determined?
A. When demand is greater than supply.
B. When demand and supply are equal.
C. When supply is greater than demand
D. Where there are a lot of customers.

The figure below is a diagram showing a method of controlling parasites in cattle. Use it to answer questions 17 and 18

17. Name the method above.
A. Dipping
B. Spraying
C. Dusting
D. Drenching

18. Which of the following parasites could be controlled using the method above?
A. Worms
B. Ticks
C. Mites
D. Fleas

19. The following are cultural practices followed when establishing agroforestry plot, **except**
A. Digging planting holes
B. Weeding
C. Planting large seeds
D. Planting stem cuttings

Continued/……

20. Which of the following ways of improving soil fertility means leaving the land uncultivated for some time so that bush grows.
A. Mixed cropping
B. Crop rotation
C. Strip cropping
D. fallowing

SCIENCE AND TECHNOLOGY

21. Which of the following is a vaccine to prevent tuberculosis (TB)
A. DDT
B. DPT
C. BCG
D. ABC

22. Which of the following methods can be used to separate a liquid which forms a clear boundary with another liquid.
A. Evaporation
B. Distillation
C. Filtration
D. Decanting

23. The following technologies which can be used in the classroom can be improvised, **except**
A. Books
B. Chalkboards
C. Rulers
D. Pental markers

24. Which of the following parts of an electric circuit controls the flow of electricity?
A. Cell
B. Switch
C. Bulb
D. Fuse

25. Which of the following food nutrients are needed for the development of bones and cartilages for the unborn baby.
A. Calcium and phosphorus
B. Proteins and carbohydrates
C. Vitamins and fats
D. Iron and minerals

26. Which of the following joints allow to and from movement?
A. Ball and socket joints
B. Gliding joints
C. Sliding joints
D. Hinge joints

27. The colored part of the eye is called _____
A. Sclera
B. Pupil
C. Iris
D. White part

28. Which of the following stems stores food for the plant?
A. Irish potatoes
B. Cassava
C. Sweet potatoes
D. Groundnuts

29. Which of the following terms refers to young grasshoppers?
A. Insects
B. Nymphs
C. Zygote
D. Larva

Continued/……

The diagram below is a type of a traditional kitchen. Use it to answer question 30

30. Name the type of kitchen above.
    A. Indigenous kitchen
    B. Enclosed kitchen
    C. Open air kitchen
    D. Village kitchen

31. Which of the following materials can be used for improving the quality of products?
    A. Clay
    B. Wood
    C. Plastic
    D. Vanish

32. Which of the following worms can be prevented by cooking meat thoroughly?
    A. Tapeworms
    B. Roundworms
    C. Hookworms
    D. Earth worms

33. Which of the following is a wet refuse?
    A. Dry leaves
    B. Sewage
    C. Waste paper
    D. Rugs

34. Which of the following is a by-product of photosynthesis.
    A. Carbon dioxide
    B. Nitrogen
    C. Oxygen
    D. Water

35. Which of the following animals is an omnivore?
    A. Duck
    B. Snake
    C. Hawk
    D. Elephant

36. An organism that lives and feeds on another organism is called ____?
    A. Vector
    B. Scavenger
    C. Pest
    D. Parasite

37. What name is given to the interpretation of the message by the receiver?
    A. Communication
    B. Decoding
    C. Inputting
    D. Coding

38. What do tapeworms use in order to stick to the lining of the human intestines?
    A. Legs and arms
    B. The head and legs
    C. Suckers and hooks
    D. Tail and the head

Continued/……

39. Which of the following is a substance used on white articles in order to brighten them?
A. Bleach
B. Stain remover
C. Starch
D. Laundry equipment

40. What is the function of veins in 'the human body? They carry blood
A. With oxygen to all parts of the body
B. Without oxygen from all parts of the body
C. Without oxygen to all parts of the body
D. With oxygen from all parts of the body

SECTION B: (60 Marks)

AGRICULTURE

41. (a). State the main difference between fingerlings and flyers?

_____

_____

_____

_____ (2 marks)

(b). Why is it important to feed fish in a pond at the same time and place each day?
_____ (1 Mark)

(c). Describe any two indigenous technologies that are used as pesticides using one point for each technology.

_____

_____

_____

_____ (2marks)

42. (a). Give **two** examples of farm implements which are pulled by oxen.

_____

_____ (2 marks)

Continued/……

(b). State **two** methods which can be used to improve cattle production.

_____

_____ (2 Marks)

(c). Distinguish between in-breeding and outbreeding.

_____

_____

_____

_____ (2 Marks)

The diagram below shows one of the methods of controlling pests of maize. Use it to answer question 43

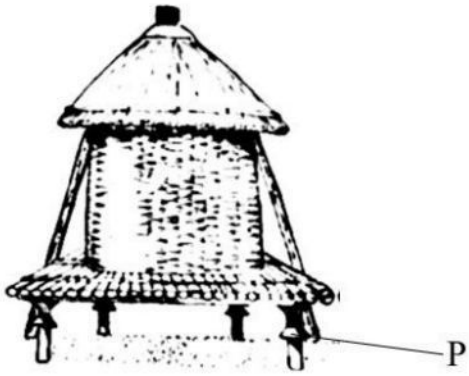

43. (a). Identify the structure marked "P".

_____ (1 Mark)

(b). What is the use of these structures on the granary.

_____

_____(2 Marks)

44. (a). What is a companion crop?

_____

_____(1 Mark)

Continued/……

(b). Give a reason why farmers in the lower shire are encouraged to grow more cotton than tobacco and tea.

_____

_____ (1 Mark)

(c). Mention **one** branch of horticulture.

_____ (1 mark)

(d). Write down any one function of the following major elements to plants

i. Phosphorous

_____ (1mark)

ii. Potassium

_____ (1mark)

45. (a). Give **one** example of a finished product from vegetables.

_____ (1 Mark)

(b). What causes dumping off as a disease of vegetables?

_____ (1 Mark)

(c). State **one** importance of harvesting leaf vegetables at the right time.

_____ (2 marks)

(d). Explain any one way in which HIV and AIDS would affect the production of food at national level?

_____

_____ (2 Marks)

46. (a). Why is fermentation of cassava important?

_____

_____ (2 Marks)

(b). What name is given to a poisonous chemical found in cassava?

_____ (1 Mark)

Continued/……

(c). Mention **two** ways through which the use of herbicides could help to improve agricultural production.

_____

_____ (2 Marks)

SCIENCE AND TECHNOLOGY

47. (a). Mention **two** diseases which affect the brain.

_____

_____ (2 Marks)

(b). Give **two** examples of waste products which are transported by blood in the human body.

_____

_____ (2 Marks)

(c). Explain **one** reason why blood clotting is important to the body.

_____

_____ (2 Marks)

48. (a). How is the ovary connected to the stigma.

_____ (1 Mark)

(b). Mention any **two** properties of heat energy that are used to construct a thermometer.

_____

_____ (2 Marks)

(c). Describe the reason why a vacuum flask have a glass that has the inner part and its outer part silvered.

_____

_____

_____ (2 Marks)

(d). Give one function of tendons in the human body.

_____ (1 Mark)

Continued/……

The diagram below shows an example of a protozoa. Use it to answer question 49.

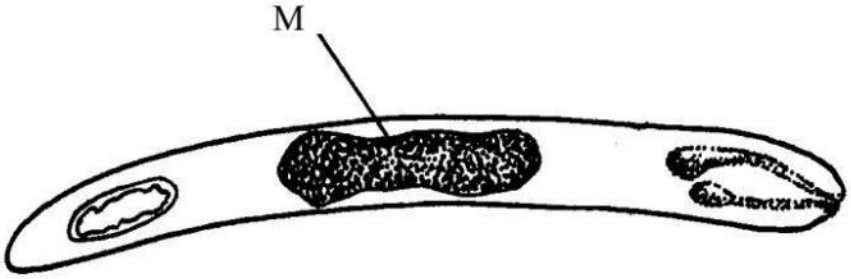

49. (a). Name the protozoa above.

_____ (1 Mark)

(b). Identify the part labelled "M"

_____ (1 Mark)

50. (a). Mention **one** insect which undergoes incomplete metamorphosis.

_____ (1 Mark)

(b). Give a reason why an Irish potato is a stem.

_____

_____ (1 Mark)

(c). State **one** example of a reflected sound.

_____ (1 mark)

(d). Explain the difference between suspensions and solutions.

_____

_____

_____

_____ (2 Marks)

(e) Define the term nutrition

_____

_____ (2 Marks)

Continued/……

51. (a). Explain how arrow can be improved as one of the indigenous technology.

_____

_____ (2 Marks)

(b). Explain a reason why connecting identical bulbs in series circuit reduces their brightness.

_____

_____ (2 Marks)

(c). Define the term variables.

_____

_____ (1 Mark)

The diagram below is a sense organ. Use is to answer question 52



52. (a). Identify the part marked "t".

_____ (1 Mark)

(b). State **one** way of caring for the sense organ.

_____ (1 Mark)

(c). Give a reason why hairs and mucus found in the nostrils are useful to the body.

_____

_____ (2 Marks)

END OF QUESTION PAPER

NB: This paper contains 11 printed pages