SHERASONGWE PRIMARY SCHOOL

2026 PRIMARY SCHOOL LEAVING CERTIFICATE MOCK EXAMINATION

PRIMARY SCIENCE

(100 marks)

Time Allowed: 2 hours
1:00 – 2:30 pm

Name of Candidate: _____
(Surname First)

Name of School: _____

Instructions

1. **This paper contains 9 pages. Please check**
2. This paper has two sections **A** and **B**. Section **A** consists of **30** multiple choice questions carrying **1 mark** each. **Encircle** a letter of your choice representing the right answer to each question. Section **B** has **15** structured questions. Write your answers in the spaces provided. The maximum number of marks for each answer is indicated against the question.
3. Answer **all** questions.
4. In the table provided on this page, **tick** against the question number you have answered.
5. Please make sure you have written your **name** and **examination number** on the question paper in the spaces provided.
6. Hand in your question paper to the invigilator when time is called to stop writing.

Question Number	Tick Questions 31 – 45 if answered	Do not write in these columns	
1 – 30			
31			
32			
33			
34			
35			
36			
37			
38			
39			
40			
41			
42			
43			
44			
45			

Turn over

Section A: 40 marks
AGRICULTURE

1. Which of the following pests of maize eat leaves from the margin inwards?
A. stalk borer
B. red locust
C. army worm
D. grasshopper

2. Which of the following breeds of goats is kept for mohair?
A. somali
B. saanen
C. kamori
D. toggernburg

3. When making compost manure, why wood ash added?
A. to decay fast.
B. increase manure.
C. reduce acid.
D. encourage decomposition.

4. Which of the following fruits can be propagated by the use of suckers?
A. pineapples
B. oranges
C. granadillas
D. apples

5. Which of the following activities in marketing functions is done in storage?
A. drying
B. assembling
C. displaying
D. stocking

Figure I is a diagram showing layers of soil. Use it to answer questions **6** and **7**.

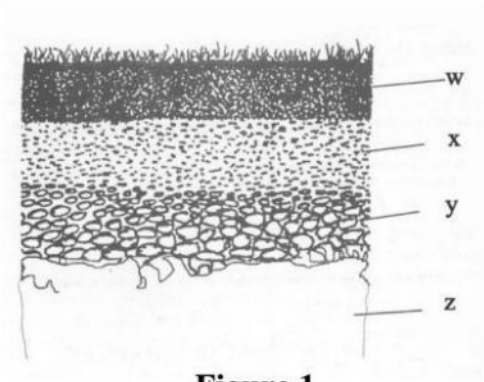

Figure 1

6. Which of the following layers of soil has better aeration?
A. W
B. X
C. Y
D. Z

7. Which of the following layers is also known as the bed rock?
A. W
B. X
C. Y
D. Z

8. Which of the following farm tools is used for loosening the soil?
A. hoe
B. hand fork
C. hand trowel
D. rake

9. Which of the elements of the agricultural environment is used by plants to make their own food?
A. animals
B. plants
C. soil
D. water

10. Which of the following cause coccidiosis in chickens?
A. protozoa
B. plasmodia
C. virus
D. bacteria

11. Which of the following tree species is treated by removing fleshy pulp?
A. chammwamba
B. kachere
C. chitimbe
D. msangu

Figure 2. is a diagram showing an activity of animals husbandry practices. Use it to answer questions **12** and **13.**

Figure 2

12. Name the animal husbandry practices being practiced?
A. vaccination
B. drenching
C. feeding
D. breeding

13. Why is the animal husbandry practice important?
A. make the animals grow fat.
B. kill germs inside the body.
C. prevent it from bearing young ones.
D. protect it from predators.

14. Which of the following tree species provide medicinal value?
A. gmelina
B. india
C. accasia
D. pawpaw

15. Why should sown seeds be mulched with grass or leaves?
A. to grow fast.
B. to get more sunlight.
C. to reduce evaporation.
D. to mature early.

A farmer noticed that cattle in his Khola were showing the following signs and symptoms: high fever, excessive salivation and lameness. Use this information to answer questions 16 and 17.

16. Which of the following diseases were the cattle suffering from?
A. sleeping sickness.
B. east coast fever.
C. tuberculosis.
D. foot and mouth disease.

17. Which of the following ways controls the disease?
A. restrict movement.
B. regular dipping.
C. control tsetse flies.
D. kill and bury infected animals.

18. Which of the following farm implements is used for lifting water?
A. wheel barrow
B. treadle pump
C. motorized pump
D. wind mill

19. Which of the following methods is used to apply fertilizer in maize field?
A. dollop
B. foliar
C. banding
D. broadcasting

20. Which of the following weeds can be best controlled by crop rotation?
A. black jack
B. star grass
C. witch weed
D. commeline

SCIENCE AND TECHNOLOGY

21. Which of the following processes refers to the change of solids to gas?
A. evaporation
B. solidification
C. condensation
D. sublimation

22. Which of the following attach muscles to bones?
A. ligaments
B. tendons
C. joints
D. skeleton

23. Which of the following accidents can be treated by pressing the belly with a sudden upwards jerk?
A. choking
B. drowning
C. sprain
D. grazes

Figure 3 shows a type of worm. Use it to answer questions **24** and **25.**

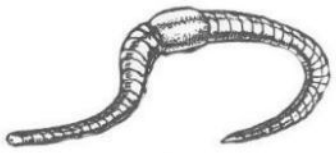

Figure 3

24. Name the worm
A. planaria
B. nematode
C. ascaris
D. annelida

25. To which group of invertebrates does it belong
A. protozoa
B. worms
C. arthropods
D. molluscs

26. Which of the following arteries takes blood into the kidneys?
A. renal
B. iliac
C. hepatic
D. mesenteric

27. Which of the following is an example of synthetic fibre?
A. linen
B. silk
C. rayon
D. asbestos

28. Which of the following is the best way of preventing HIV and AIDS?
A. being faithful.
B. abstinence from sex.
C. using condoms correctly.
D. having only one sexual parties.

29. Which of the following components controls the flow of electricity in an electric circuit?
A. cell
B. wire
C. fuse
D. switch

30. In the human breathing system where does the exchange of oxygen and carbon dioxide take place?
A. heart
B. lungs
C. alveoli
D. bronchus

31. Which of the following parts of plants is the reproductive part?
A. flower
B. roots
C. stem
D. leaves

Figure 4 is a diagram showing a type of machine. Use it to answer questions **31** and **32.**

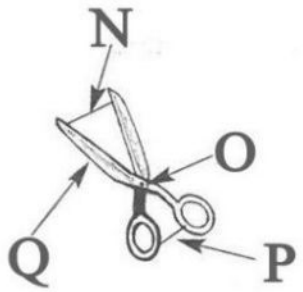

Figure 4

32. What is the type of the machine above?
A. pulley
B. lever
C. plane
D. wedge

33. Which of the following parts represents the effort?
A. N
B. O
C. P
D. Q

34. Which of the following steps takes place in the conclusion stage of a scientific investigation?
A. identifying variables.
B. evaluating hypothesis.
C. analysis data.
D. collecting data.

35. Which of the following fruit and seeds dispersed by water?
A. african daisy.
B. cotton seed
C. coconut seed.
D. wall flower.

36. A person who is recovering from an illness is called?
A. convalescent
B. invalid
C. vegetation
D. elderly

37. Which of the following is a secondary food processing?
A. soaking mphale.
B. pounding cereals.
C. making thobwa
D. grinding grain

38. Which of the following plants have stems with tendrils?
A. yam
B. pumpkins
C. rose
D. banana

39. Which of the following resources is needed when making soap?
A. egg shell
B. powder soap
C. caustic soda
D. candle wax

40. Which of the following is formed soon after conception?
A. zygote
B. egg
C. foetus
D. embryo

Section B (60 Marks)
AGRICULTURE

41. a. Give any **two** characteristics that make Mlamba a suitable fish species for fish farming.

_____

_____

(2 marks)

b. Why is it important to feed farm animals properly? **Give two reasons?**

_____

_____

(2 marks)

c. State any **two** advantages of a deep litter chicken house.

_____

_____

(2 marks)

Figure 5 is a diagram showing a method of irrigation. Use it to answer question **42a** and **b**

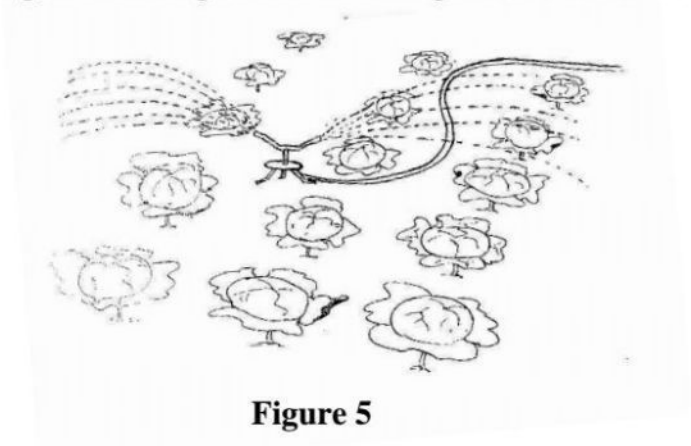

Figure 5

42. a. Mention the method of irrigation in the diagram?

_____

_____

(1 mark)

b. Describe how it works

_____

_____

(2 marks)

c. Give any **two** reasons why water is important to crops?

_____

_____

(2 marks)

43. a. How can the problem of perishability of produce be solved? **Give two reasons**

_____

_____

(2 marks)

b. Explain how soil fertility affects agricultural production?

_____

_____

(2 marks)

44. Classify the following breeds of cattle based on their functions: Charolais, boron, Arshire hereford and Jamaica hope

Dairy breeds : _____

_____

_____

Beef breeds : _____

_____

_____

(5 marks)

45. a. Why should the following be done in vegetable nursery management?

i. Weeding

_____

_____

(1 mark)

ii. Hardening off

_____

_____

(1 mark)

b. Give any **two** ways of conserving soil?

_____

_____

(2 marks)

46. a. State any **two** reasons why trees are important to animals?

_____

_____

(2 marks)

b. Mention the **three** types of agroforestry?

_____

_____

(3 marks)

SCIENCE AND TECHNOLOGY

47. a. Why should a pregnant woman eat adequate amounts of the following food nutrients?

i. Proteins

_____

_____

(1 mark)

ii. Iron

_____

_____

(1 mark)

b. What are the effects of the following diseases in children?

i. Polio

_____

_____

(1 mark)

48. a. State any **two** activities that can lead to the destruction of the environment?

_____

_____

(2 marks)

b. Mention any **two** technologies for conserving the environment?

_____

_____

(2 marks)

c. Define environment?

_____

_____

(1 mark)

Figure 6 is a diagram showing a method of cooking. Use it to answer question **49a.**



Figure 6

49. a. Identify the method of cooking?

_____

_____

(1 mark)

b. Mention any **two** foods that can be cooked using the method?

_____

_____

(2 marks)

c. Describe any **two** disadvantages of the method of cooking?

_____

_____

(2 marks)

50. a. Describe the relationship among family size, income and food supply?

_____

_____

(2 marks)

b. State any **two** factors to consider when planning meals?

_____

_____

(2 marks)

51. a. Mention any **two** materials for making toys?

_____

_____

(2 marks)

b. Explain any **one** way of marketing toys

_____

_____

(2 marks)

52. a. What is a food chain?

_____

_____

(1 mark)

b. Construct a food chain for the following: Birds, Caterpillars, Green, Grass and Snakes

c. Explain what would happen if all the caterpillars are killed?

_____

(1 mark)

END OF QUESTION PAPER

NB: This paper contains 9 printed pages.