EXAMINATION NUMBER .....

NAMATAPA ZONAL EXAMINATION BOARD

2025 PRIMARY SCHOOL LEAVING CERTIFICATE MOCK EXAMINATIONS

ARTS AND LIFE SKILLS (100 MARKS)

Subject Number: P067

Friday, 02 may

Time Allowed:1 h 30mins

01:00- 02:30pm

Name of Candidate:_____

(Surname First)

Name of School: _____

Instructions

1. This paper contains 7 printed pages. Please check.

2. This paper consists of 3 sections **A, B,** and **C**.

3. Write all your answers to the question in sections **B** and **C** in the spaces provided on the question paper. In section **A** encircle the letter representing the right answer to each question.

4. Answer **all** questions.

5. In the table provided on this page, **tick** against the question number you have answered

Question number	Tick Qs 31 – 40 if answered	Do not write in these columns	
1-30			
31			
32			
33			
34			
35			
36			
37			
38			
39			
40			

IMPORTANT

- Please make sure you have written your **name** and **examination number** on the question paper in the spaces provided
- Hand in your question paper to the invigilator when time is called to stop writing.

©nazeb2025

SECTION A . (40 MARKS)

EXPRESSIVE ARTS

1. Which of the following is an importance of traditional dances to the body?
   A. Entertaining the people
   B. Increasing knowledge and skills
   C. Strengthening the muscles and bones
   D. Promoting cultural values

2. Which of the following artworks can be used to communicate non-verbally?
   A. Songs C. Posters
   B. Drama D. Poem

3. In the components of general space, which sporting activity does not need air pattern?
   A. Chess C. Jumping
   B. Netball D. Table tennis

4. How can a class monitor avoid facing challenges in class?
   A. Beating learners who misbehave
   B. Exercising good leadership skills
   C. Sharing food and money to learners
   D. Chasing learners out of class

5. Which of the following acts as a mordant in dyeing of fabrics?
   A. Water C. Iodine
   B. Salt D. Sugar

6. What is macramé`
   A. Designing stitches
   B. Decorative knot
   C. Decorative stitch
   D. Wall hanging

7. Which of the following artistic items can be used to improve the home?
   A. Hoes handle
   B. Ear rings
   C. Wall hangings
   D. Drum

Figure 1 shows a diagram of a musical instrument. Use it to answer questions **8** and **9**

.

8. Name the musical instrument.
   A. Mkangala C. Guitar
   B. Banjo D. Nkhwende

9. How does the musical instrument produce sound?
   A. By blowing
   B. By striking
   C. By plucking
   D. By beating

10. Which of the following is a knitting stitch?
   A. Weft C. Applique
   B. Garter D. Hemming

LIFE SKILLS

11.Which of the following is a factor that promotes high self-esteem?
   A. Beliefs
   B. Success
   C. Culture
   D. Rituals

12.Which of the following misconceptions is associated with the abuse of drugs and substances?
   A. Protects people from contracting STI's
   B. Makes people intelligent
   C. people engage in unprotected sex
   D. Makes people feel aggressive

13.Which of the following skills should prevent the discrimination of less privileged people in a society?
   A. Self-awareness
   B. Assertiveness
   C. Empathy
   D. Self esteem

14.Which of the following statements is the meaning of gender inequality?
   A. The treatment that give someone power
   B. The treatment that favours one sex over another
   C. The treatment that is fair to all
   D. The treatment that favours both men and women

Figure 2 is an illustration of an activity done in a community. Use it **to answer questions 15 and 16**

©Nazeb2025

15.Which of the following activities is being practised?

A. Teaching
B. Entrepreneurship
C. Carpentry
D. Knitting

16.Why is it important for families to engage in such an activity?

A. To buy basic needs
B. To boost the immunity
C. To have more sexual partners
D. To have more friends

Longa is a standard 7 boy at a certain primary school. He drinksbeer and smokes chamba. He often beats fellow learners. His performance in class has lowered. Use this information **to answer questions 17 and 18**

17.How could Longa be assisted to change his behaviour?

A. Telling fellow learners to beat him
B. Guiding and counselling him
C. Suspending him from school
D. Not giving him food at home

18.Who could be the right people to assist Longa in this situation?

A. Chiefs
B. Teachers
C. Police officers
D. Doctors

19.Which of the following is not an example of an acceptable behaviour in a society?

A. Honesty
B. Injustice
C. Equality
D. Respect

20.Which of the following are signs and symptoms of syphilis?

A. Pain in the lower abdomen
B. Yellowish discharge from sexual organs
C. Burning sensation when urinating
D. Itching in the genital area

21.Which of the following is a characteristics associate with middle adolescent stage?

A. Establishing self-image
B. Showing unstable character
C. Experiencing mood swings
D. Beginning to think in abstract terms

Figure 3 is diagram showing a man in a truck talking to a young girl.

22.What type of abuse did the man in the car commit to the young girl?

A. Child trafficking
B. Sexual abuse
C. Physical abuse
D. Sexual harassment

23.Which of the following is an organization where children can report cases of abuse?

A. Social welfare organization
B. Germany Agency for Technical cooperation
C. Hunger project
D. YUNECO

24.Which of the following is a positive effect of stress and anxiety?

A. Short temper
B. Acceptable behaviour
C. Improved awareness
D. High alertness

©Nazeb2025

25.The term used to describe the value that one places on oneself is called

A. Empathy
B. Self esteem
C. Tolerance
D. Assertiveness

26.Which of the following is a way of overcoming barriers to peaceful conflict resolution?

A. Injustice
B. Tolerance
C. Promoting discrimination
D. Promoting gender inequality

27.Why are street children and orphans more vulnerable to HIV and AIDS infection?

A. They are empowered to negotiate for protected sex
B. They lack guidance and counselling
C. They move from one town to another
D. They do a lot of work

28.What is the role of a mediator in conflict resolution?

A. Acts a judge
B. Forces conflicting parties reach an agreement
C. Helps conflicting parties to see what went wrong
D. Makes final decision

Kako is a standard 8 learner at Nkhokwe primary school. She was not doing well in class. One day she joined a certain group of girls that were working hard in school, as a result Kako's performance improved. Use this information to answer questions **29 and 30**

29.Which of the following situations changed Kako's plan?

A. Chronic illness
B. Positive peer pressure
C. Orphan hood
D. Lack of resources

30.Which of the following life skills did kako use in this situation?

A. Self-awareness
B. Coping with stress
C. Effective communication
D. Entrepreneurship

SECTION B (70 MARKS)

EXPRESSIVE ARTS (40 marks)

31. a. (i) Define the following terms:

(i) "Extensions apply"

_____(1 mark)

(ii) "Components of general space"

_____(1 mark)

(ii) Name. any one activity which needs space but does not cover distance.

_____(1 mark)

b. (i) Mention any two games that require relay skills.

_____

_____(2 marks)

(ii) Why are rhythmic patterns used in mirroring activities? Give two reasons.

_____

_____(2 marks)

32. a. What does the attire of animal skins and shields symbolize in some cultures?

_____(1 marks)

b. **Figure 4** shows an artistic performance. Use it to answer the questions that follow.

©Nazeb2025



(i) Identify the type of artistic activity.

_____(1 mark)

(ii) Mention any two messages that can be sent through this artistic activity.

_____

_____(2 marks)

(iii) Apart from your answer in Q. 32 b (i), give any two other ways of conveying messages in a community.

_____

_____(2 marks)

C. (i) Give any two skills that players may use during sporting activities.

_____

_____(2 marks)

(ii) Give any two reasons why players need to practise basic skills before participating in the actual games.

_____

_____(2 marks)

d. Give any two reasons for preventing risky behaviours when participating in sporting activities.

_____

_____(2 marks)

33**. Figure 5** shows a structure that helps to improve quality of everyday life. Use it to answer the questions that follow:



a. (i) What name is given to the structure? -

_____(1 marks)

(ii) Name any two materials that could be used to construct this structure.

_____

_____(2 marks)

(iii) Give any two ways in which the structure could be made strong

_____

_____(2 marks)

©Nazeb2025

b. State any two ways in which artistic items are made.

_____

_____(2 marks)

c. Name any two homemade items that can be made from local materials.

_____

_____(2 marks)

d. Give any two ways in which culture can be preserved.

_____

_____(2 marks)

Figure 6 shows an environmental problem. Use it to answer the questions that follow



34. a. (i) Name any two artistic activities that could lead to this problem.

_____

_____(2 marks)

(li) Give any two ways in which this problem could be prevented.

_____

_____(2 marks)

b. (i) Name any two temporary stitches that could be used in sewing.

_____

_____(2 marks)

(ii) Give any two materials that could be produced by knitting.

_____

_____(2 marks)

c. Mention any two cross cutting issues that can be solved through assertiveness.

_____

_____(2 marks)

LIFE SKILLS (30 MARKS)

36. a.(i) Mention any two risky behaviours that can lead to the spread of HIV

_____

_____ (2 marks)

(ii) State any one role of community in prevention of mother to child transmission

_____ (1 mark)

b. (i) What are Anti-retroviral?

_____

_____ (2 marks)

(ii) Mention two side effects of ARV's

_____

©Nazeb2025

_____ (2 marks)

c. Give two causes of sexual harassment and abuse.

_____

_____ (2 marks)

37. a. (i) Mention two physical changes experienced by both girls and boys.

_____

_____ (2 marks)

(ii) Give any two cultural practices that affect good health habits.

_____

_____ (2 marks)

b. State two types of wastes from people and animal bodies.

_____

_____ (2 marks)

c. Write down three basic needs that are mostly needed in everyday life.

_____

_____

_____ (3 marks)

38. a. Mention any two basic human rights for children

_____

_____ (2 marks)

b. Give any two effects of peer pressure

_____

_____ (2 marks)

39. a. State one characteristic of a person with a positive self-awareness.

_____ (1 mark)

b. Mention two factors that influence low self-esteem.

_____

_____ (2 marks)

40. a. Mention two ways of resolving conflicts peacefully.

_____

_____ (2 marks)

b. Give two situations that requires decision making and problem solving

_____

_____ (2 marks)

c. Mention any one importance of resolving conflicts peacefully

_____ (1 mark)

END OF QUESTION PAPER

©Nazeb2025