MOUNTAIN VIEW ZONAL EXAMINATIONS BOARD
2026 PRIMARY SCHOOL LEAVING CERTIFICATE
MOCK EXAMINATIONS

SOCIAL AND BIBLE KNOWLEDGE

100 MARKS

DATE: _____

Subject Number: P 199
Time allowed: 1 h 30 mins
1:00 – 2:30 pm

Name of candidate: _____

(Surname First)
Name of School: _____

Instructions:

1. **This paper contains 10 printed pages. Please check.**
2. Write your examination number on each page of this paper.
3. This paper has **three** sections: **A, B** and **C.**
4. Answer **all** questions in sections **A** and **B** and **C**.
5. Write your answers in the spaces provided.
6. Follow instructions for each section carefully.
7. In the table provided on this page, **tick** against the question number you have answered.
8. **IMPORTANT**
   - Please make sure you have written your **name** and **examination number** on the question paper in the spaces provided.
   - Hand in your question paper to the invigilator when time is called to stop writing.

Question Number	Tick Questions 30 – 40 if answered	Do not write in These columns	
1 – 30			
31			
32			
33			
34			
35			
36			
37			
38			
39			
40			

© 2026 MOVIZEB

SOCIAL AND ENVIRONMENTAL SCIENCES

Section A: (30 marks)

Answer all questions in this section.

Encircle the letter representing the correct answer.

1. Which branch of the government is headed by the president?
   A. judiciary C. legislature
   B. executive D. magistrate
2. Which of the following is an example of road signals?
   A. road detour
   B. road junction
   C. pedestrian crossing
   D. indicator lights
3. Which of the following processes claim and compensates on behalf of the client?
   A. broker C. police
   B. agent D. relative
4. Which of the following is the economic use of the Shire river?
   A. generating electricity
   B. source of transport
   C. home of aquatic animals
   D. source of water
5. Which of the following African prominent leaders was against the apartheid in his country?
   A. Dr. Kwame Nkrumah
   B. Jomo Kenyatta
   C. Nelson Mandela
   D. Dr. Kamuzu Banda
6. Which of the following organisations has its headquarters in Brussels in Belgium?
   A. African Union
   B. United Nations Organisation
   C. Organisation of Petroleum
   D. European Union
7. Which of the following terms describe the way of life for a given group of people.
   A. art and craft
   B. marriage system
   C. culture
   D. family
8. Which of the following planets is closest to the sun?
   A. Saturn C. Earth
   B. Mercury D. Pluto
9. Which of the following types of climate has no summer?
   A. Equatorial
   B. Tundra
   C. Tropical Monsoon
   D. Tropical Savanna
10. Which of the following types of trade is done between countries?
    A. bilateral C. international
    B. internal D. multilateral

11. Which of the following explorers of Africa was sent by American newspaper?

A. Mungo Park
B. John Speke
C. D.r David Livingstone
D. Henry Morton Stanley

12. Which of the following physical features has the flat area on top of the mountain?

A. plain C. hills
B. basin D. plateau

13. Which of the following organisations deals with displaced people?

A. UNHCR C. WHO
B. FAO D. UNICEF

14. Which of the following is not a factor which led to the growth of the Ngoni kingdom?

A. trade
B. political organisation
C. military organisation
D. cattle keeping

15. Name the head of cities and municipal assemblies.

A. minister C. mayor
B. councillor D. president

Figure 1 below shows an instrument that is used at the weather station. Use it to answer question 16 and 17.

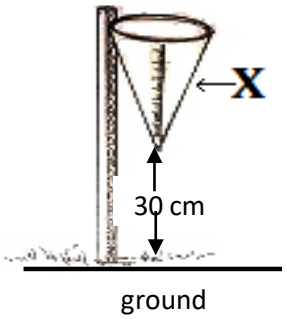

16. Name the instrument shown in the figure.

A. Rain gauge C. Wind vane
B. Cup anemometer D. Wind sock

17. Why is the instrument raised 30 cm above the ground?

A. to be seen from the distance
B. to avoid water from the ground splashing into it
C. to avoid insects from entering the container
D. so that the container does not touch the ground

18. Which of the following groups of people has the characteristics of a short flat nose?

A. Hamites C. Bantu
B. Nilotes D. Negroes

19. Which of the following formed a strong government in Roman civilisation?

1. Consuls
2. Plebians
3. Patricians
4. Senators

A. 1 and 2 C. 1 and 4
B. 2 and 3 D. 3 and 4

20. Which of the following types of families is common in all societies?

A. child headed families
B. extended families
C. nuclear families
D. single families

21. Which of the following is the quality of a good citizen?

A. dishonest C. cooperation
B. lazy D. attend class

22. What type of tax is collected directly from business profits?

A. surtax C. customs duty
B. income tax D. exercise duty

23. Which of the following was a leader of the Dutch Reformed Church Mission (DRCM)?

A. Andrew Murray
B. Dr. Robert Laws
C. Alexander Hetherwick
D. Bishop Mackenzie

Figure 2 shows British District Administration. Use it to answer question 24 and 25.

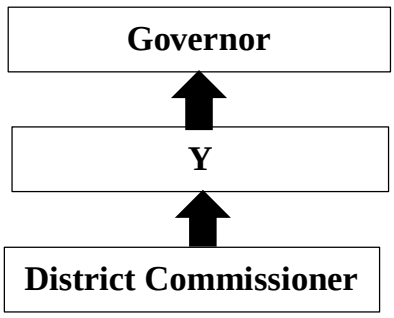

24. Who was the first governor of Nyasaland?

A. Alfred Sharpe
B. Charles Matinga
C. Glyn Jones
D. Sir. Robert Armitage

25. Name the rank indicated Y.

A. secretary general
B. provincial commissioner
C. provincial governor
D. district overseer

26. Which of the following is a gender role?

A. breast feeding babies
B. impregnating girls
C. bearing children
D. fetching water

27. Which of the following tribes in Malawi was the first to be in contact with the Arabs?

A. Tumbuka C. Sena
B. Lomwe D. Yao

28. Which of the following languages was spoken by the Karanga people in Mwenemutapa?

A. Xhosa C. Ndebele
B. Shona D. Zulu

29. Which of the following types of insurance could benefit an injured person?

A. Life insurance
B. Property insurance
C. Medical insurance
D. Endowment insurance

30. Which of the following social economic institution provides grants to developing countries?

A. Savings and Credit Cooperation (SACCO)

B. European Union (EU)

C. African Development Bank (ADB)

D. World Bank

SECTION B: (35 MARKS)

31. Define the term latitudes.

_____

_____(1 mark)

b. Outline **two** importance of latitudes and longitudes.

_____

_____

_____

_____ (2 marks)

c. Describe any **two** ways how air can be polluted.

_____

_____ (2 marks)

d. Give any **two** importance of mountains.

_____

_____ (2 marks)

32. a. Mention **two** effects of West African slave trade.

_____

_____ (2 marks)

b. Write down **three** ways in which minerals can be used sustainably.

_____

_____

_____(3 marks)

c. Give the difference between a forest and forestry.

_____

_____(2 marks)

Study the table which shows the population of the three schools. Use it to answer question 33a and b.

SCHOOL	**POPULATION**
Ndamanga	5466
Chiswe	1974
Kamwendo	4598

33. a. Which school has the highest population?

_____(1 mark)

b. Find the average population of Ndamanga and Chiswe.

_____

_____

_____(1 mark)

c. Give any **two** aims of the United Nations Organization.

_____

_____

_____

_____(2 marks)

d. Outline any **three** ways of acquiring citizenship in Malawi.

_____

_____

_____(3 marks)

34. a. Give any **two** examples of natural disasters.

_____

_____ (2 marks)

b. State any **two** advantages of democratic system of government.

_____

_____

_____(2 marks)

c. Define the term ‘global warming’.

_____

_____

_____(1 mark)

d. Why did Britain abandoned the preferential trade in 1971?

_____

_____

_____ (2 marks)

Figure 2 is a map of Malawi. Use it to answer question 35a, b and c.

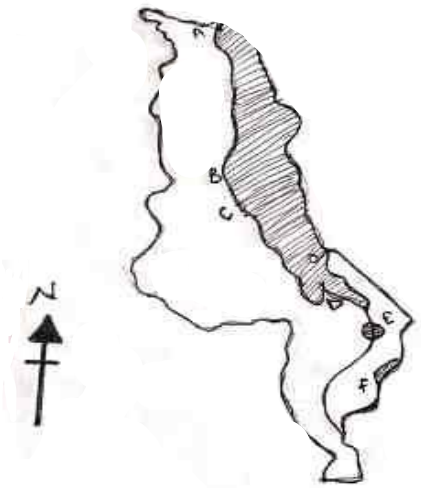

35. a. Name the district marked **A.**

_____

_____(1 mark)

b. What is the name of the lake marked **E**?

_____(1 mark)

c. Mention **one** cash crop grown in district marked **B**.

_____(1 mark)

d. Explain any **two** factors that led Nyasaland to become a British Protectorate.

_____

_____

_____(2 marks)

SECTION C: BIBLE KNOWLEDGE (35 marks)

36. a. Mention any **two** duties of a prophet.

_____

_____(2 marks)

b. Describe any **two** situations in which Jesus showed love to people.

_____

_____(4 marks)

c. Who is a gentile?

_____

_____(1 mark)

37. a. Describe how the Israelites crossed the Red sea.

_____

_____

_____

_____(3 marks)

b. Why did Jephthar offer his only daughter as a burnt offering?

_____

_____(2 marks)

c. Give any **two** reasons why many people followed Jesus when he started his ministry in Galilee

_____

_____2 marks)

38. a. Why did Jesus want the raising of Jairus daughter to be a secret. Give **one** reason.

_____

_____(2 marks)

b. What lesson is learnt from each of the following parables?

i. parable of the two sons

_____

_____(2 marks)

ii. parable of the good Samaritan

_____

_____(2 marks)

c. How did God reveal His message to Isaiah?

_____(1 mark)

39. a. Why was the blood of the lamb killed during passover sprinkled on the door posts?

_____

_____(1 mark)

b. Why did Jesus heal the man with demons in the land of Gerasa?

_____

_____(2 marks)

c. Mention any **two** ways of resolving conflicts peacefully.

_____

_____(2 marks)

d. Name **two** prophets who preached against oppression of the poor.

_____

_____(2 marks)

40. a. What did the pillar of the cloud symbolise to the Israelites?

_____(1 mark)

b. Name the person in the Bible who was forgiven by God and had more years added to his life?

_____(1 mark)

c. State how God answered the prayers of the following people

i. Hannah

_____

_____(2 marks)

ii. Paul and Silas.

_____

_____(2 marks)

d. Which story in the Bible teaches about abstinence?

_____(1 mark)

END OF QUESTION PAPER!!!!